Lesson 1.1 Grouping Objects

Write an equation to match each array.



3 + 3 = 6



5 + 5 + 5 + 5 = 20

___ + ___ + ___ = ___

___ + ___ + ___ + ___ + ___

= ___



___ + ___ + ___ = ___

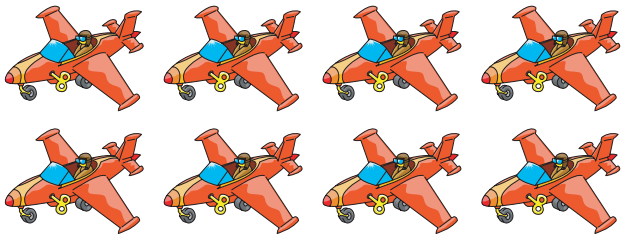

___ + ___ = ___