NAME _____

Lesson 1.4 Odd or Even?

Circle the groups that are odd.

Tell how many. Label odd or even. Write an equation.



8 dolls even

4 + 4 = 8

_____ cars _____

____ + ____ = ____



_____ jets _____

____ + ____ = ____



____ bears _____

____ + ____ = ____