NAME _____

Lesson 6.14 How Much Longer?

Measure each object. Tell how much longer one object is than the other.



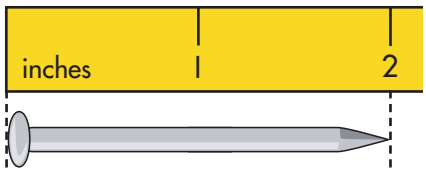

$$\begin{array}{r} 3 \\ -2 \\ \hline 1 \end{array}$$

3 inches 2 inches 1 inch longer

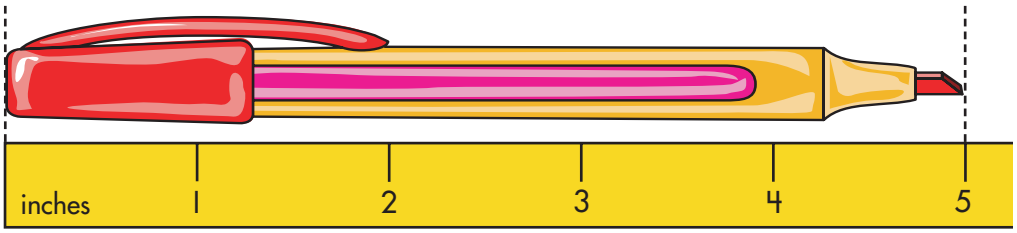

_____ inches

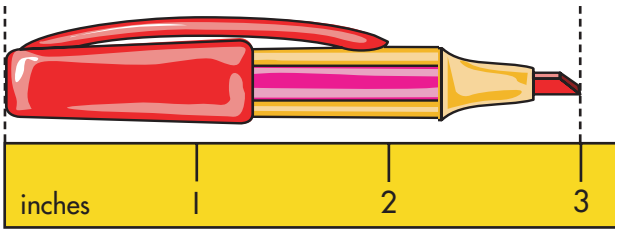

_____ inches

_____ inches longer

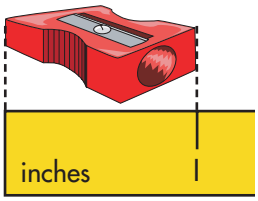

_____ inches

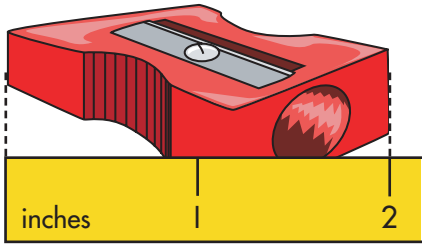

_____ inches

_____ inches longer

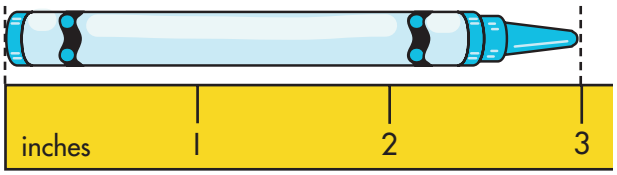

_____ inches

_____ inches longer

_____ inches