NAME _____

Lesson 7.4 Gathering Data to Draw a Line Plot

Use a ruler to measure the length of each object.

1.



$2\frac{1}{2}$ in.

2.



_____ in.

3.



_____ in.

4.



_____ in.

5.



_____ in.

6.



_____ in.

7.



_____ in.

Use the information above to fill in the line plot.

8.
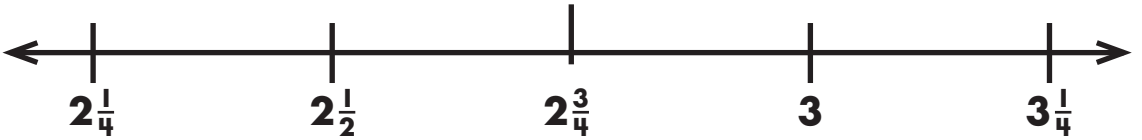
Fish in the Pond