NAME _____

Lesson 7.6 Measuring Area

To find the area of a square or rectangle, multiply length by width.

10 ft. × 2 ft. = 20 sq. ft.

The product is written as 20 square feet.

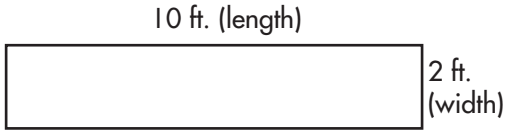

Find the area of each shape.

1.

a

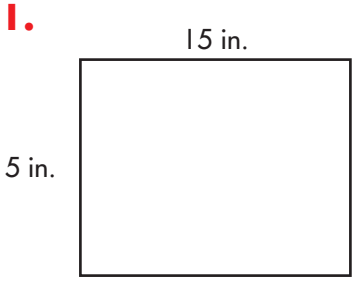

75 sq. in.

b

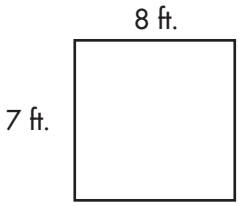

_____ sq. ft.

c

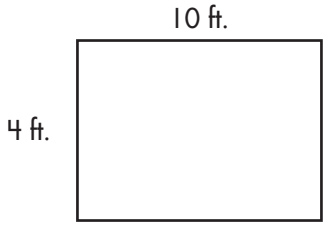

_____ sq. ft.

d

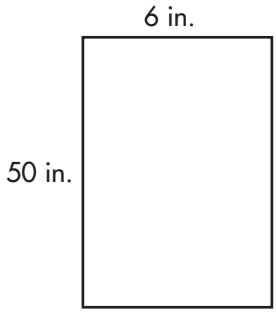

_____ sq. in.

2.

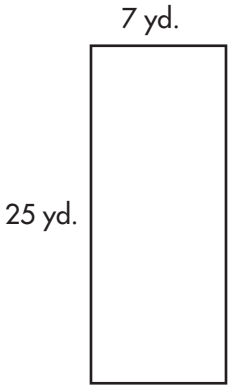

_____ sq. yd.



_____ sq. in.

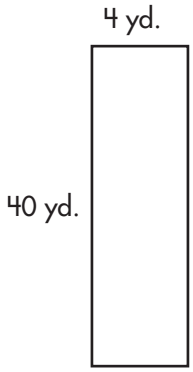

_____ sq. yd.

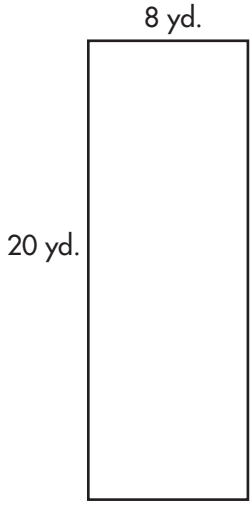

_____ sq. yd.