NAME _____

# Lesson 7.9 Measuring Perimeter

**Perimeter** is the distance around a shape.

To calculate perimeter, add together the lengths of all the sides.

Perimeter = 17 in. + 10 in. + 17 in. + 10 in.

Perimeter = 54 in.

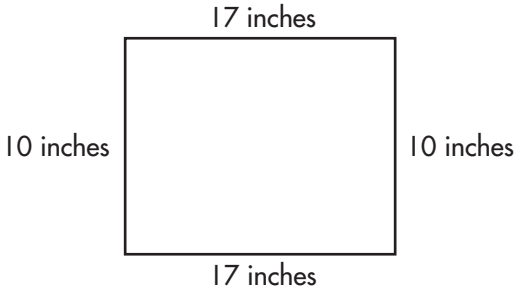


## Find the perimeter of each shape.

**a**

**1.**

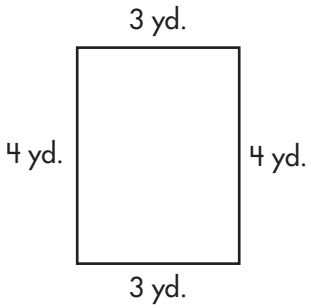


_____ yd.

**b**

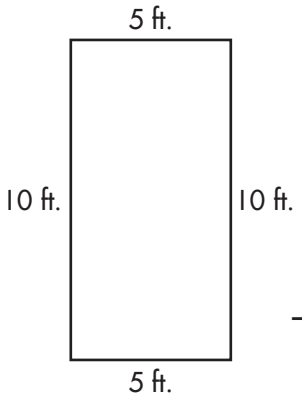


_____ ft.

**c**

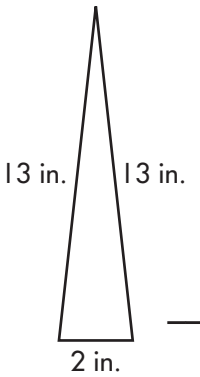


_____ in.

**2.**

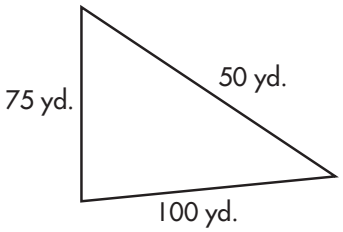


_____ yd.




_____ yd.

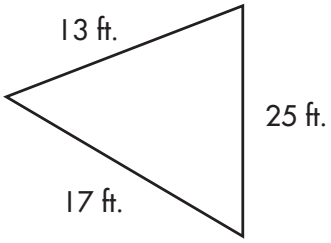


_____ ft.

## Find the unknown side.

**3.**

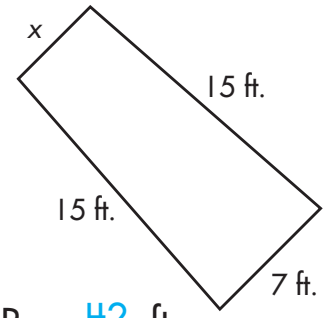


P = 42 ft.

x = ____ ft.

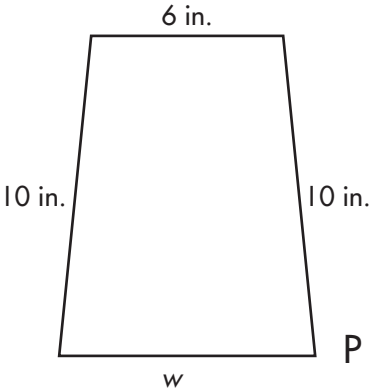


P = 34 in.

w = ____ in.

P = 150 in.
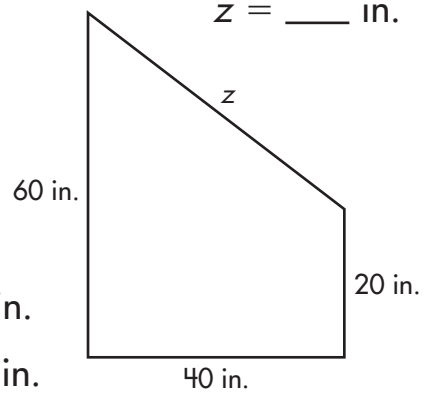
z = ____ in.